Do not write outside the box

Some water was added to a mixture of two solids, **C** and **D**.

The mixture was stirred and then poured into the apparatus shown in **Figure 8**.

Figure 8

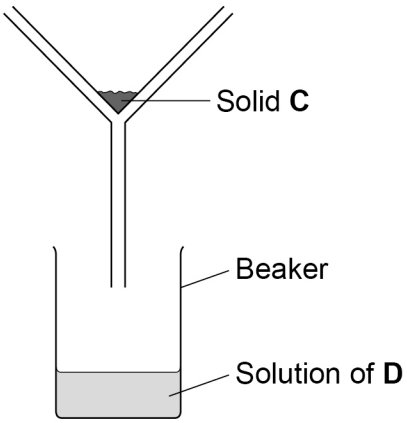

0 4 . 2 Name the separation method shown in **Figure 8**.

[1 mark]

_____

0 4 . 3 Explain why solid **C** separated from the mixture of **C** and **D**.

Use **Figure 8**.

[2 marks]

_____

_____

_____

_____

Turn over ►

Do not write outside the box

A student separated a mixture of three liquids, **G**, **H** and **I**.

Figure 9 shows the apparatus.

Figure 9

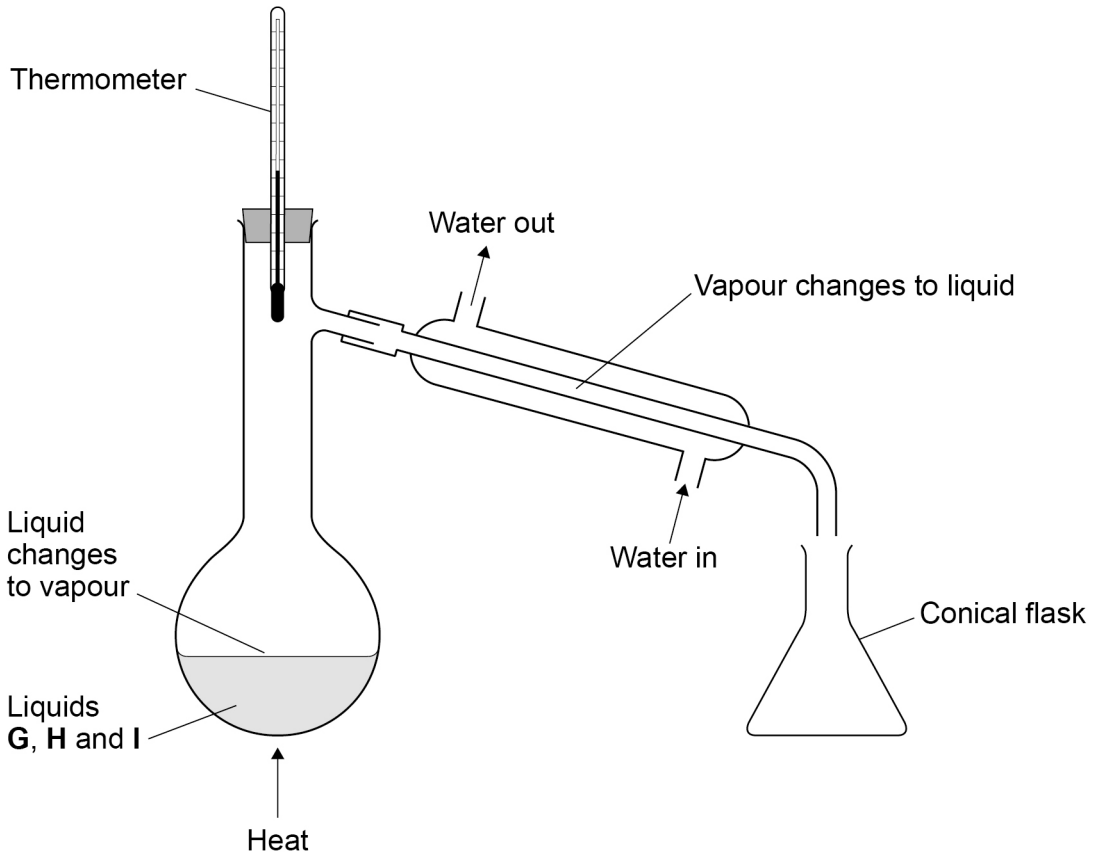

0 4 . 4 Name the separation method shown in **Figure 9**.

[1 mark]

_____

Do not write outside the box

0 4 . 5 **Table 5** shows the boiling points of the three liquids, **G**, **H** and **I**.

Table 5

Liquid	Boiling point in °C
G	56
H	78
I	100

Which liquid collected **first** in the conical flask?

[1 mark]

Tick (✓) **one** box.

G ☐ **H** ☐ **I** ☐

0 4 . 6 Two processes occur in the apparatus shown in **Figure 9**.

Draw **one** line from each description to the name of the process.

[2 marks]

Description	Name of process
	Condensing
Liquid changes to vapour	Evaporating
Vapour changes to liquid	Freezing
	Melting

Do not write outside the box

0 4 . 7 **Figure 10** shows part of the apparatus shown in **Figure 9**.

Figure 10

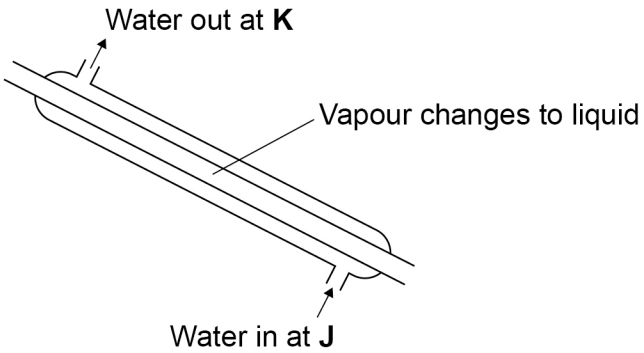

Which statement is correct?

[1 mark]

Tick (✓) **one** box.

The temperature of water at **K** is lower than at **J**. ☐

The temperature of water at **K** is the same as at **J**. ☐

The temperature of water at **K** is higher than at **J**. ☐

9