Do not write outside the box

0 1 This question is about the Earth's atmosphere.

0 1 . 1 The Earth's atmosphere contains 21% oxygen.

Draw the bar for oxygen on **Figure 1**.

[1 mark]

Figure 1

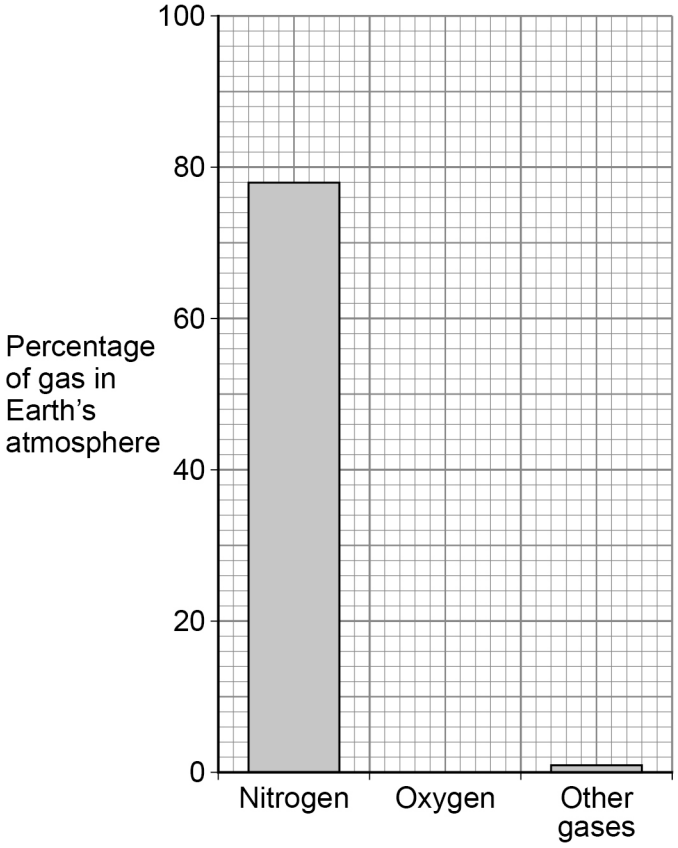

0 1 . 2 What is used to test for oxygen gas?

[1 mark]

Tick (✓) **one** box.

A burning splint ☐

A glowing splint ☐

Damp litmus paper ☐

Limewater ☐

Do not write outside the box

The Earth's early atmosphere was very different from the Earth's atmosphere today.

Figure 2 shows the composition of the Earth's early atmosphere and of the Earth's atmosphere today.

Figure 2

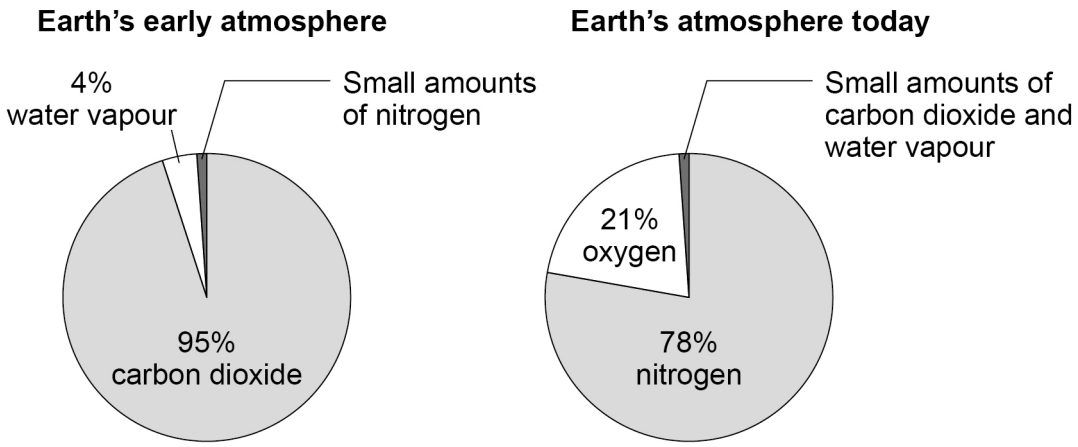

0 1 . 3 The percentages of nitrogen and oxygen in the Earth's atmosphere today are different from the Earth's early atmosphere.

Complete the sentences.

Choose answers from the box.

Use **Figure 2**.

Each answer can be used once, more than once or not at all.

[2 marks]

decreased	**increased**	**stayed the same**

Since the Earth's early atmosphere, the percentage of nitrogen in the Earth's atmosphere has _____ .

Since the Earth's early atmosphere, the percentage of oxygen in the Earth's atmosphere has _____ .

Do not write outside the box

0 1 . 4 The Earth's atmosphere today contains a small amount of carbon dioxide.

Why has the percentage of carbon dioxide decreased since the Earth's early atmosphere?

[2 marks]

Tick (✓) **two** boxes.

- Dissolved in oceans ☐
- Formation of sedimentary rocks ☐
- Industrialisation ☐
- Respiration ☐
- Volcanic activity ☐

Do not write outside the box

Oxides of nitrogen are produced when nitrogen reacts with oxygen in car engines.

Figure 3 shows the concentration of oxides of nitrogen in the atmosphere during one day in a city.

Figure 3

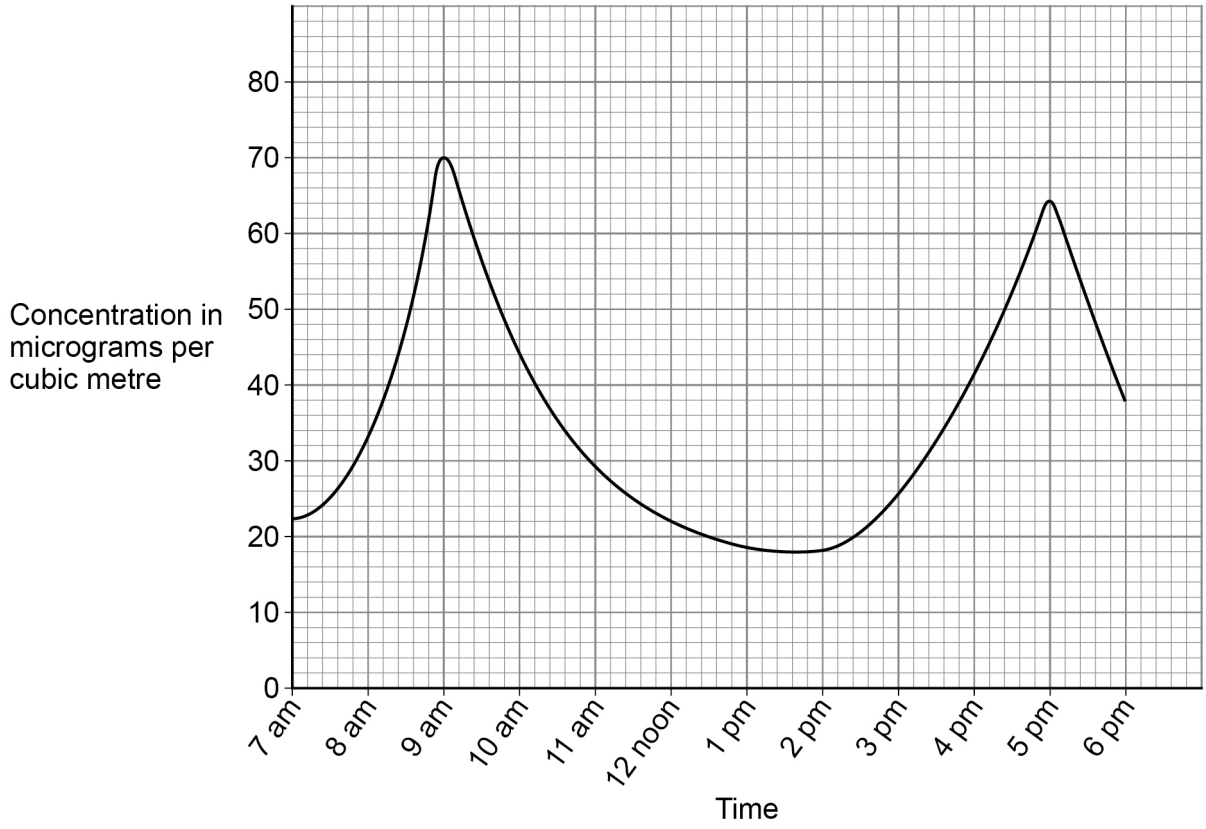

0 1 . 5 Which **two times** have the highest concentrations of oxides of nitrogen in the atmosphere?

[2 marks]

1 _____

2 _____

0 1 . 6 Suggest why there are the highest concentrations of oxides of nitrogen at these times.

[1 mark]

_____

_____

9

Turn over ►